Name: _____ **Date:** _____

Exemplar Full Worksheet

1. A student is using a ruler to measure the length of a pencil. Observe the diagram below and state the exact length of the pencil in centimetres. **[1 Mark]**

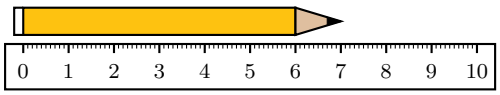

_____

2. A person standing 15 m away from the base of a tree uses a clinometer to measure the angle of elevation to the top of the tree, finding it to be 42°. Assuming the measurement is taken from ground level for simplicity, calculate the height of the tree to two decimal places. **[2 Marks]**

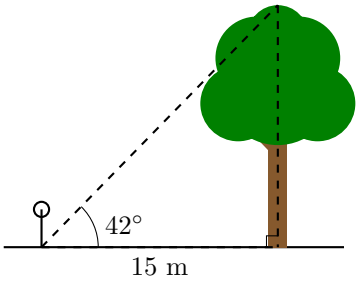

3. A cylinder of radius r and height h is inscribed inside a right circular cone of base radius R and height H. Find the maximum possible volume of the inscribed cylinder in terms of R and H. **[4 Marks]**

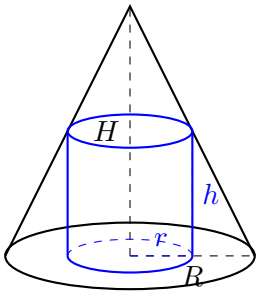

4. Physics (Electromagnetism): Consider the series RLC circuit below, driven by an AC voltage source. Calculate the resonant frequency of this circuit in Hertz. **[3 Marks]**

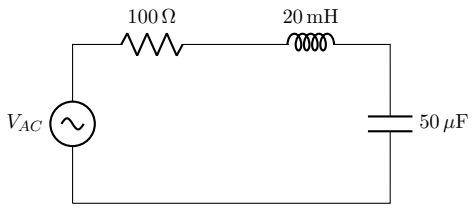

_____

_____

_____

5. Advanced Chemistry (Organic Synthesis): Below is the skeletal structure of Aspirin. Identify the three primary functional groups present. Write the balanced chemical equation for the synthesis of Aspirin reacting salicylic acid with acetic anhydride. **[4 Marks]**

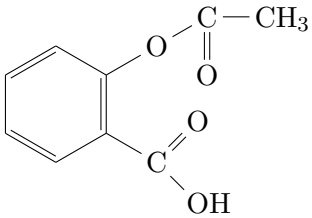

6. Junior Scale: The time shown below is in the morning. Write the current time in 12-hour and 24-hour formats. **[2 Marks]**



12hr: _____ **24hr:** _____

myaitutor.au/worksheets

7. The diagram below shows the 2D net of a right triangular prism. Given the dimensions in cm, calculate the total surface area. **[3 Marks]**

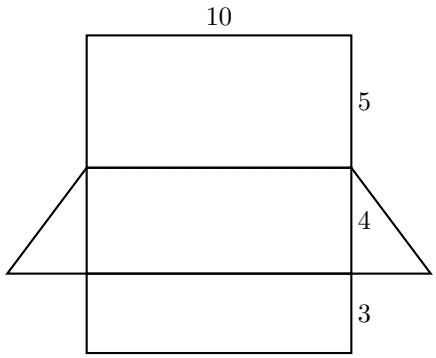

8. Consider the differential equation $\frac{dy}{dx} = x - y$. A direction field is provided below. Sketch the solution curve through $(0, 1)$. **[3 Marks]**

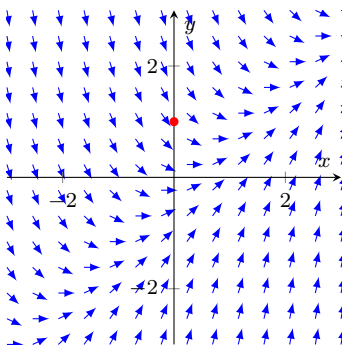

9. A wave function is modelled by $y = 2\sin(x) + 1$. Sketch the graph of this function bounding the x-axis from $-\frac{\pi}{4}$ to $\frac{9\pi}{4}$. **[3 Marks]**

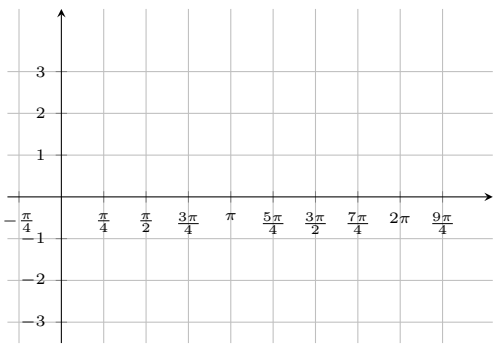

10. Mathematics Ext 1 (3D Vectors): Calculate the dot product $\mathbf{u} \cdot \mathbf{v}$ for $\mathbf{u} = 4\mathbf{i} + 4\mathbf{j} + 2\mathbf{k}$ and $\mathbf{v} = 0\mathbf{i} + 3\mathbf{j} + 4\mathbf{k}$. Find the exact angle between them to the nearest degree. **[3 Marks]**

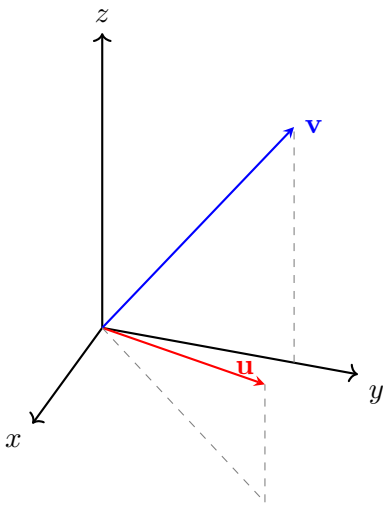

11. Mathematics Ext 2 (Complex Roots): The diagram illustrates the 5th roots of unity. Let $w = \text{cis}\left(\frac{2\pi}{5}\right)$. Prove that $1 + w + w^2 + w^3 + w^4 = 0$. **[3 Marks]**

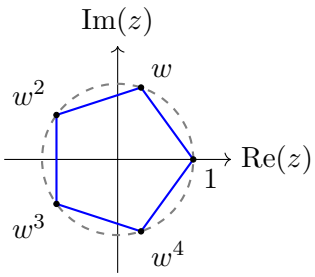

12. Geometry (Circle Theorems): AB is a tangent to the circle at C. If $\angle BCD = 42°$, calculate $\angle CED$. Give reasons. **[2 Marks]**

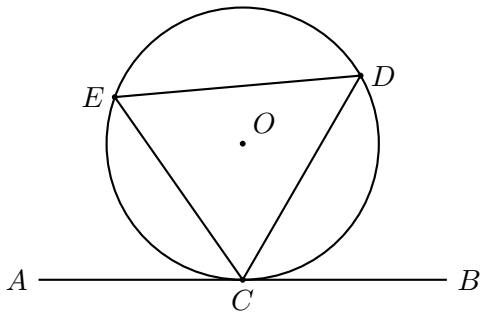

myaitutor.au/worksheets

13. Statistics: The discrete random variable X has the probability distribution below. Determine k, and calculate $E(X)$. **[3 Marks]**

x	0	1	2	3	4
$P(X = x)$	0.1	$2k$	0.3	k	0.15

14. Computer Science: A sequence used in an encryption algorithm is defined recursively as $a_n = 2a_{n-1} - 1$, with seed $a_1 = 3$. Calculate a_4. Scan the QR code to submit. **[2 Marks]**

15. Mathematics Standard 2 (Networks): The network diagram below represents the travel times in minutes between six towns, labelled A to F. Determine the shortest time taken to travel from town A to town F, and list the vertices in this shortest path. **[2 Marks]**

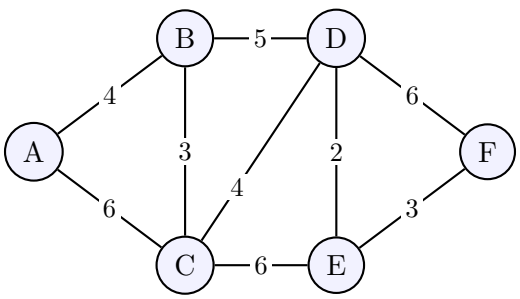

16. Physics (Mechanics): A block of mass $m = 5$ kg rests on an inclined plane at an angle of $\theta = 30°$. Draw a free-body diagram on the block showing the normal force, gravity, and friction. **[3 Marks]**

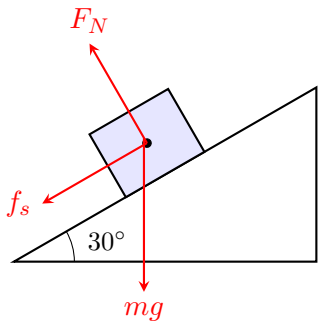

17. Calculus (Integration): Find the exact area of the shaded region bounded by the curves $y = x^2$ and $y = 8 - x^2$. **[3 Marks]**

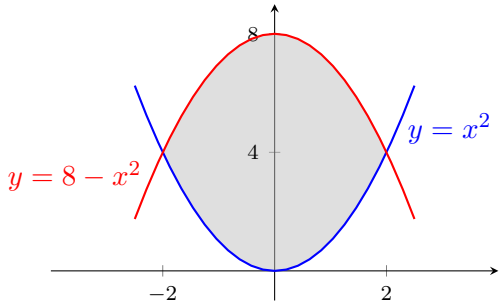

18. Calculus (Numerical Integration): The diagram below shows the curve $y = -\frac{1}{2}x^3 + 3x^2 - \frac{9}{2}x + 4$. Use the Trapezoidal Rule with 4 subintervals to find an approximation for the area bounded by the curve, the x-axis, and the lines $x = 0$ and $x = 4$. **[3 Marks]**

$$\int_a^b f(x)\,dx \approx \frac{h}{2}\left[f(a) + 2\sum_{i=1}^{n-1} f(x_i) + f(b)\right]$$

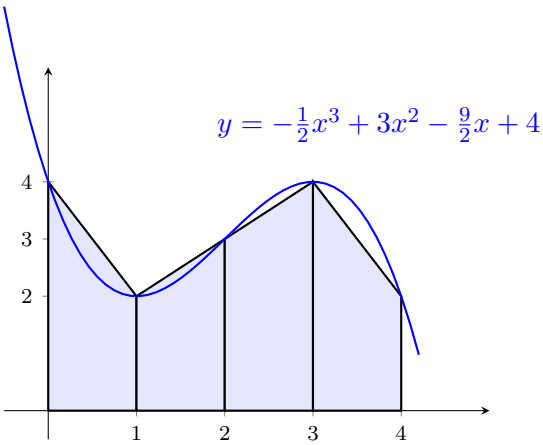

myaitutor.au/worksheets

1. **English Advanced (Literary Analysis):** Translate the following excerpt from Shakespeare's *Hamlet* into modern Australian vernacular. Additionally, identify and analyse the primary literary device used by Shakespeare in the final two lines to convey mental anguish. **[4 Marks]**

William Shakespeare, *Hamlet*

To be, or not to be, that is the question:
Whether 'tis nobler in the mind to suffer
The slings and arrows of outrageous fortune,
Or to take arms against a sea of troubles...

2. **Modern History (Timeline Analysis):** The timeline below maps four critical flashpoints of the Cold War. Select ONE of these events and evaluate its long-term impact on United States-Soviet Union geopolitical relations. **[4 Marks]**

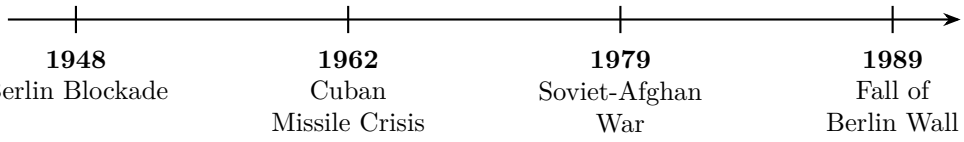

3. **Spot the Error (Calculus):** **[1 Mark]**

A student was asked to find the volume of the solid generated when the region bounded by $y = x^2$, the x-axis, and $x = 3$ is rotated around the x-axis using the Disk Method. They submitted the following step-by-step working. Identify the specific line number where the logical error occurred, and explain the mistake.

Student's Working

Line 1: $V = \pi \int_0^3 r(x)\,dx$
Line 2: $V = \pi \int_0^3 (x^2)\,dx$
Line 3: $V = \pi \left[\frac{x^3}{3}\right]_0^3$
Line 4: $V = 9\pi$ units^3

myaitutor.au/worksheets

4. Parameter Shift (Ecology): **[3 Marks]**

Consider a standard sinusoidal predator-prey population model. If a highly aggressive invasive species is suddenly introduced to the ecosystem that competes exclusively with the prey (reducing the prey's carrying capacity significantly), explain *without doing any calculations* how the amplitude and phase shift of the predator's population wave will be fundamentally altered over time.

5. Strategic Management (Business Studies): **[3 Marks]**

A legacy automotive company has invested $500 million into developing a highly efficient internal combustion engine. Before completion, a breakthrough in solid-state batteries makes electric vehicles significantly cheaper to produce. The board argues they must launch the new combustion engine to "recover our investment." Identify the logical fallacy driving the board's argument and explain why proceeding could harm their long-term market position.

6. Computer Science (Digital Logic): Write the Boolean expression for the output Y of the following logic circuit. Construct the corresponding truth table for the four inputs A, B, C, and D. **[3 Marks]**

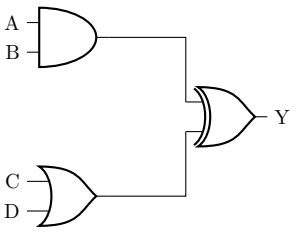

7. Statistics (Set Theory): A survey of 100 students asked if they study Maths (M), Physics (P), or Chemistry (C). The results are mapped in the Venn diagram below. Calculate the exact number of students who study *only one* of these subjects, and the probability that a randomly selected student studies Physics given that they study Maths. **[3 Marks]**

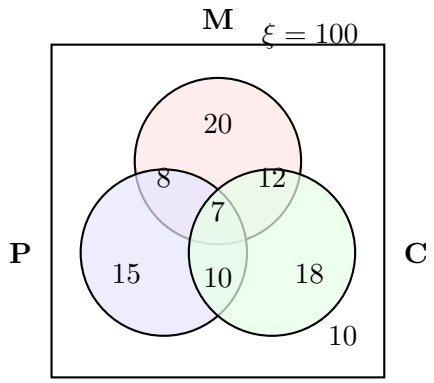

myaitutor.au/worksheets

Teacher Answer Key

Q1: Measurement
7.0 cm (Pencil tip aligns exactly with the 7 marker).

Q2: Trigonometry
$\tan(42°) = \frac{h}{15}$
$h = 15 \times \tan(42°) \approx 13.51$ m.

Q3: Optimization
By similar triangles: $\frac{h}{H} = \frac{R-r}{R} \implies h = H\left(1 - \frac{r}{R}\right)$.
$V = \pi r^2 H\left(1 - \frac{r}{R}\right)$.
$\frac{dV}{dr} = \pi H\left(2r - \frac{3r^2}{R}\right) = 0 \implies r = \frac{2}{3}R$.
$h = \frac{1}{3}H$. Max Vol $= \frac{4}{27}\pi R^2 H$.

Q4: RLC Circuit
$f_r = \frac{1}{2\pi\sqrt{LC}}$. $L = 20 \times 10^{-3}$ H, $C = 50 \times 10^{-6}$ F.
$f_r = \frac{1}{2\pi \times 10^{-3}} = \frac{1000}{2\pi} \approx 159.15$ Hz.

Q5: Chemistry
Groups: Carboxyl (carboxylic acid), Ester, Aromatic (benzene) ring.
Eq: $C_7H_6O_3 + C_4H_6O_3 \longrightarrow C_9H_8O_4 + C_2H_4O_2$

Q6: Time
12-hour: 10:10 AM. 24-hour: 10:10.

Q7: Surface Area Net
Rectangles: $(10 \times 3) + (10 \times 4) + (10 \times 5) = 120$ cm^2.
Triangles: $2 \times (\frac{1}{2} \times 3 \times 4) = 12$ cm^2.
Total SA $= 132$ cm^2.

Q8: Direction Field
Solution curve passes through $(0, 1)$, moves downwards to the right (negative gradient), and eventually becomes asymptotic to the line $y = x - 1$.

Q9: Trig Graphing
Standard sine wave properties: Amplitude $= 2$, vertical shift $= +1$. Range is $[-1, 3]$. Curve starts at $(0, 1)$, peaks at $(\frac{\pi}{2}, 3)$, crosses axis at π, troughs at $(\frac{3\pi}{2}, -1)$.

Q10: 3D Vectors
$\mathbf{u} \cdot \mathbf{v} = (4)(0) + (4)(3) + (2)(4) = 20$.
$|\mathbf{u}| = 6$, $|\mathbf{v}| = 5$.
$\cos\theta = \frac{20}{30} \implies \theta \approx 48°$.

Q11: Complex Roots
Roots are solutions to $z^5 - 1 = 0$.
Geometric sum $S_5 = \frac{1(1-w^5)}{1-w}$.
Since $w^5 = 1$, sum is 0.

Q12: Circle Geometry
$\angle CED = 42°$. Reason: Alternate Segment Theorem.

Q13: Statistics
Sum of probabilities $= 1 \implies 3k + 0.55 = 1 \implies k = 0.15$.
$E(X) = (0)(0.1) + (1)(0.3) + (2)(0.3) + (3)(0.15) + (4)(0.15) = 1.95$.

Q14: Algorithmic Recursion
$a_1 = 3 \implies a_2 = 5 \implies a_3 = 9 \implies a_4 = 17$.

Q15: English
Translation: To live or die, that is what I'm asking. Is it braver to endure the pain of bad luck, or fight against overwhelming problems.
Device: Metaphor ("sea of troubles", "slings and arrows").

Q16: History
Open response. Must detail one event (e.g., Cuban Missile Crisis established the 'hotline' and deterred direct nuclear confrontation).

Q17: Spot the Error
Error Line: Line 1 and 2.
Explanation: The student used the formula for the Disk Method, but forgot to square the function. The correct formula is $V = \pi \int [r(x)]^2 dx$.

Q18: Numerical Integration (Trapezoidal Rule)
$h = \frac{4-0}{4} = 1$
Function values: $f(0) = 1$, $f(1) = 1.5$, $f(2) = 3$, $f(3) = 5.5$, $f(4) = 9$
Area $\approx \frac{1}{2}[1 + 2(1.5 + 3 + 5.5) + 9]$
Area $\approx \frac{1}{2}[1 + 2(10) + 9] = \frac{1}{2}(30) = \mathbf{15}$ **units^2**

Q19: Reverse Engineer
Gradient = Rise / Run. 1:50.
E.g., Elevation change = 40m (2 contour intervals of 20m each). Horizontal distance $= 40 \times 50 = 2000$m $= 2$km.

Video Solution **Generate More**